SUPERVISOR TO ATTACH
PROCESSING LABEL HERE

Write your **student number** in the boxes above. **Letter**

Geography

Question and Answer Book

VCE Examination – Thursday 13 November 2025

- Reading time is **15 minutes**: 11.45 am to 12 noon
- Writing time is **2 hours**: 12 noon to 2.00 pm

Approved materials

- Coloured pencils, water-based pens and markers

Materials supplied

- Question and Answer Book of 16 pages
- Data Book

Instructions

- Use the additional space at the end of this book if you need extra space to complete an answer.

Students are **not** permitted to bring mobile phones and/or any unauthorised electronic devices into the examination room.

Contents

pages

10 questions (80 marks) 2–13

Assessment criteria for extended-answer questions 15

© VCAA 2025

VICTORIAN CURRICULUM AND ASSESSMENT AUTHORITY

VICTORIA State Government

Instructions

- Answer **all** questions in the spaces provided.
- Write your responses in English.
- Refer to the Data Book as indicated.

Question 1 (3 marks)

Identify and describe a natural characteristic of a forest.

Do not write in this area.

Question 2 (10 marks)

Name the location of your selected example of deforestation.

a. Outline **one** impact of deforestation at this location on the 4 marks

environment

social conditions

b. Discuss **one** issue and associated challenge of the impact on the social conditions outlined in **part a**. 6 marks

Do not write in this area.

Use Figure 1 on page 3 of the Data Book when responding to Question 3.

Question 3 (4 marks)

Compare the distribution of grassland to that of coniferous forest, as shown in Figure 1.

Do not write in this area.

Use Figure 2 on pages 4 and 5 of the Data Book when responding to Question 4.

Question 4 (5 marks)

a. Identify the approximate compass direction of the flow of the main body of the Fjallsjökull Glacier. 1 mark

b. State in the table below the approximate length of the Fjallsjökull Glacier in 1890 and in 2010, as shown in Figure 2d. 2 marks

Year	Length
1890	
2010	

c. Distinguish between a glacier and an ice sheet. 2 marks

Do not write in this area.

Question 5 (10 marks)

'The application of geospatial technology has done little to effectively assess and manage rates of melting ice sheets and glaciers.'

Evaluate this statement with reference to **one** selected location.

Do not write in this area.

Question 6 (8 marks)

Name the location of your selected area of fieldwork.

a. Outline the land use change that has recently occurred, is underway or is planned for the near future at your fieldwork location. 2 marks

b. Identify and explain how **two** geographic characteristics have impacted, or are likely to impact, the land use change at your fieldwork location. 6 marks

Do not write in this area.

Question 7 (12 marks)

There are many different types of population movement, including:

- forced migration
- voluntary migration
- long-term migration (greater than 10 years).

Describe each of these three types of population movement using different origin and destination examples.

Forced migration

Voluntary migration

Do not write in this area.

Long-term migration

Do not write in this area.

Use Figure 3 on page 6 of the Data Book when responding to Question 8.

Question 8 (6 marks)

The population represented in Figure 3 is experiencing a demographic dividend. A demographic dividend is a potential boost in economic productivity that can occur when the number of people in the workforce is growing relative to the number of people outside the workforce.

a. Justify, using evidence from Figure 3, that Country A is experiencing a demographic dividend. 2 marks

b. Predict a challenge that this demographic dividend could present for government or non-government organisations in Country A in the next 30 to 40 years. Justify your prediction using evidence from Figure 3. 4 marks

Do not write in this area.

Question 9 (10 marks)

Name your selected country with a growing population.

Discuss the nature of the population trends that have occurred in this country's population structure over time. Include a sketch diagram(s) to support your response. Do **not** use Country A from Question 8 in your response.

Space for sketch diagram(s)

Do not write in this area.

Question 10 (12 marks)

Name your selected country with an ageing population.

a. Identify **two** issues caused by the ageing population in your selected country. 2 marks

b. Outline a strategy implemented in your selected country in response to **one** of the issues identified in **part a**. 2 marks

Do not write in this area.

c. Discuss, using evidence, the effectiveness of the strategy outlined in **part b**. 8 marks

Do not write in this area.

End of examination questions

Extra space for responses

Clearly **number** all responses in this space.

If you use any additional Question and Answer Books to complete your responses, write your **student number** on the front cover. At the end of the examination, place the additional Question and Answer Books inside the front cover of the first Question and Answer Book.

Do not write in this area.

Assessment criteria for extended-answer questions

The extended-answer questions will be assessed against the following criteria, as appropriate:

- application of geographical knowledge and understanding
- demonstration of geographical skills
- description and application of key geographical concepts
- interpretation and analysis of data and other geographical information.

Do not write in this area.

© Victorian Curriculum and Assessment Authority 2025

Geography

Data Book

VCE Examination – Thursday 13 November 2025

Contents pages

Figure 1. Land cover change 3
Figure 2. Land cover change 4–5
Figure 3. Human population 6

Refer to the data in this book for each question, as indicated in the Question and Answer Book.

The data contained in this book is drawn from real-world case studies.

You may keep this Data Book.

© VCAA 2025

VICTORIAN CURRICULUM AND ASSESSMENT AUTHORITY
VICTORIA State Government

This page is blank.

Figure 1. Land cover change

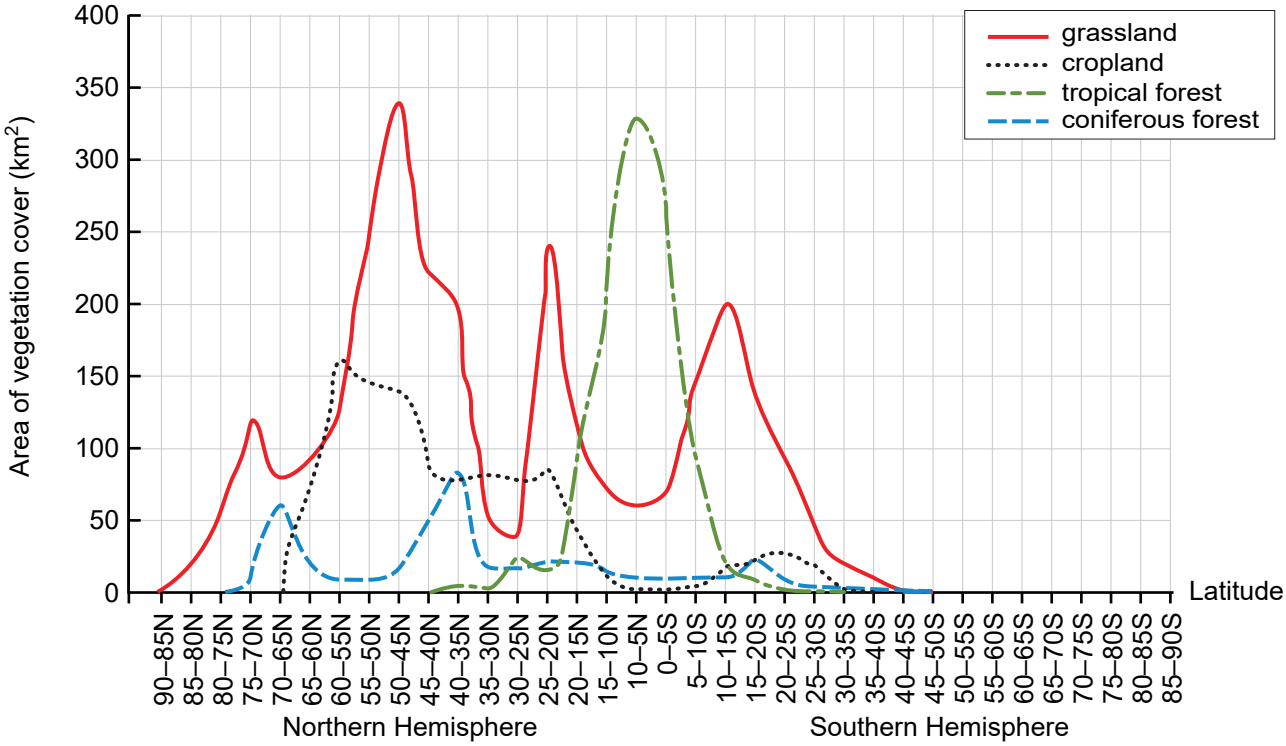

Figure 1. Spatial distribution of vegetation cover by latitude

Source: Adapted from S Huo, Q Sun, Y Shuai et al., 'Global spatial distribution of vegetation and 20 years dynamic changes', IOP Conference Series: Earth and Environmental Science, 1087 (2022) 012048; licensed CC-BY 3.0

Figure 2. Land cover change

Background information

In the southeast of Iceland, a series of melting glaciers, including Fjallsjökull, has led to the formation of a glacial lake or lagoon.

Figure 2a.

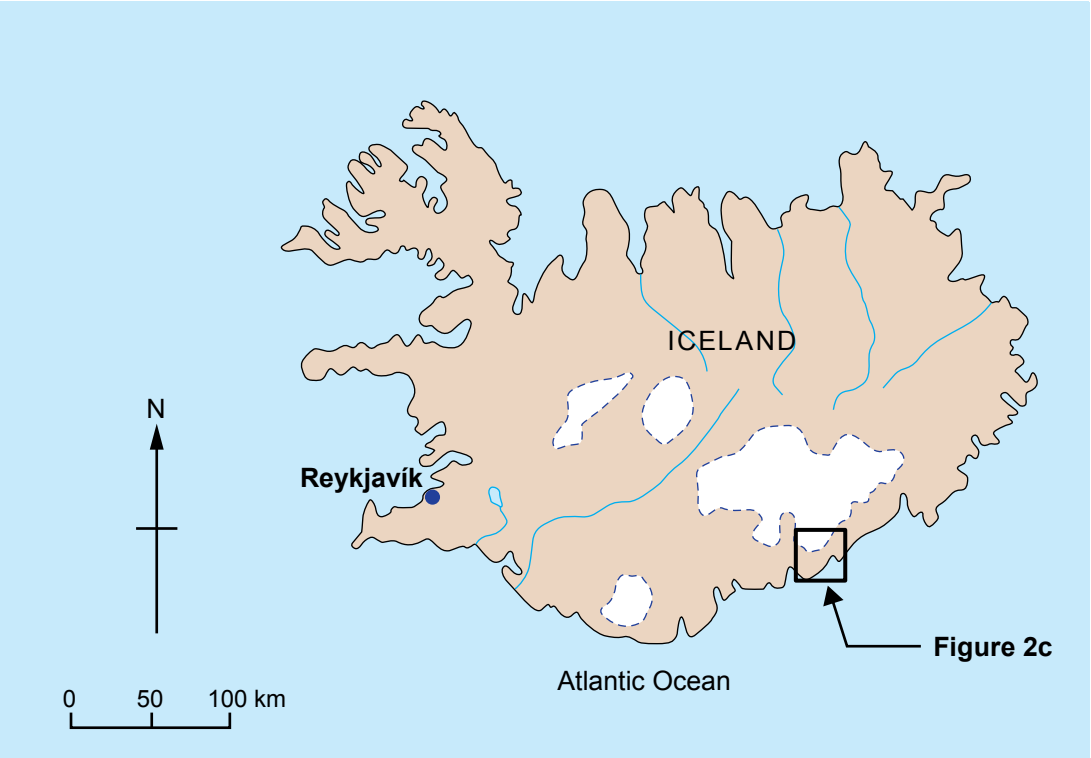

river
permanent ice
Reykjavík country capital

Figure 2b. Location of Figure 2c

Source: Adapted from *Heinemann Atlas*, 5th edition, Pearson, 2009

Figure 2. Land cover change

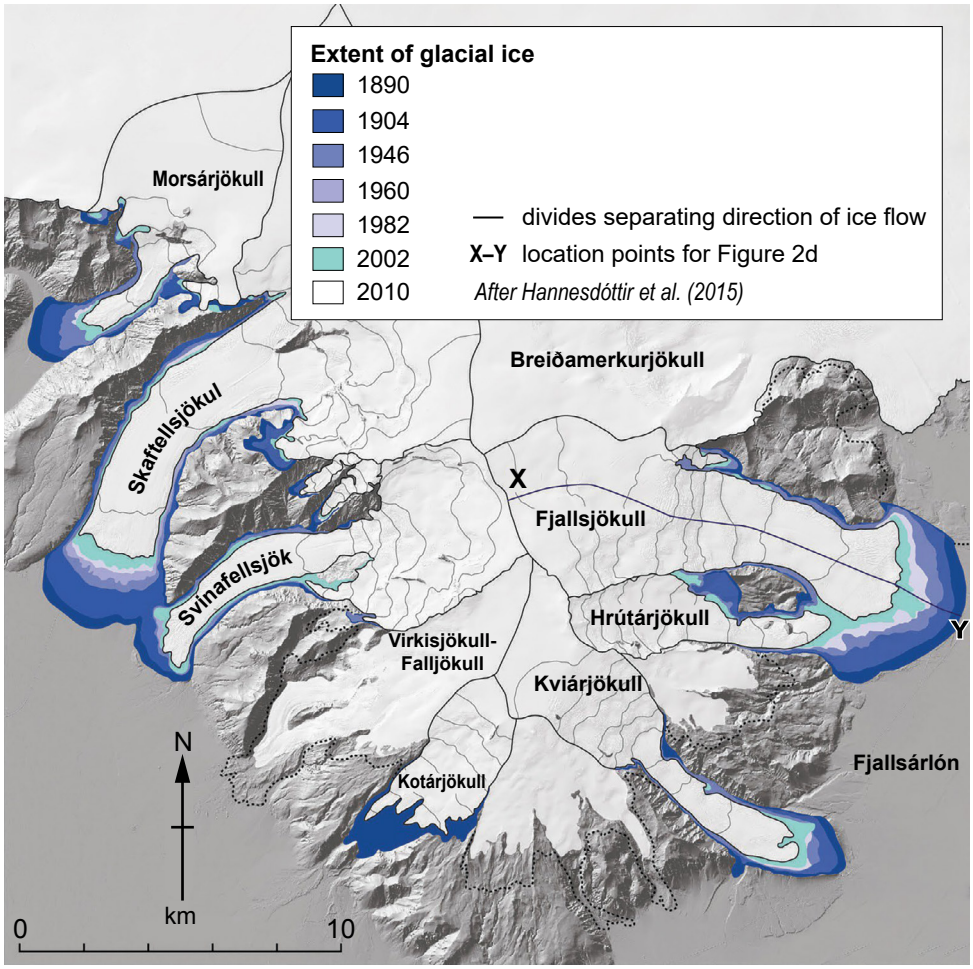

Figure 2c. Distribution of melting glaciers in southeast Iceland

Source: Adapted from BMP Chandler, DJA Evans, SJP Chandler et al., 'The glacial landsystem of Fjallsjökull, Iceland: Spatial and temporal evolution of process-form regimes at an active temperate glacier', *Geomorphology*, 361 (2020) 107192 ; licensed CC-BY 4.0

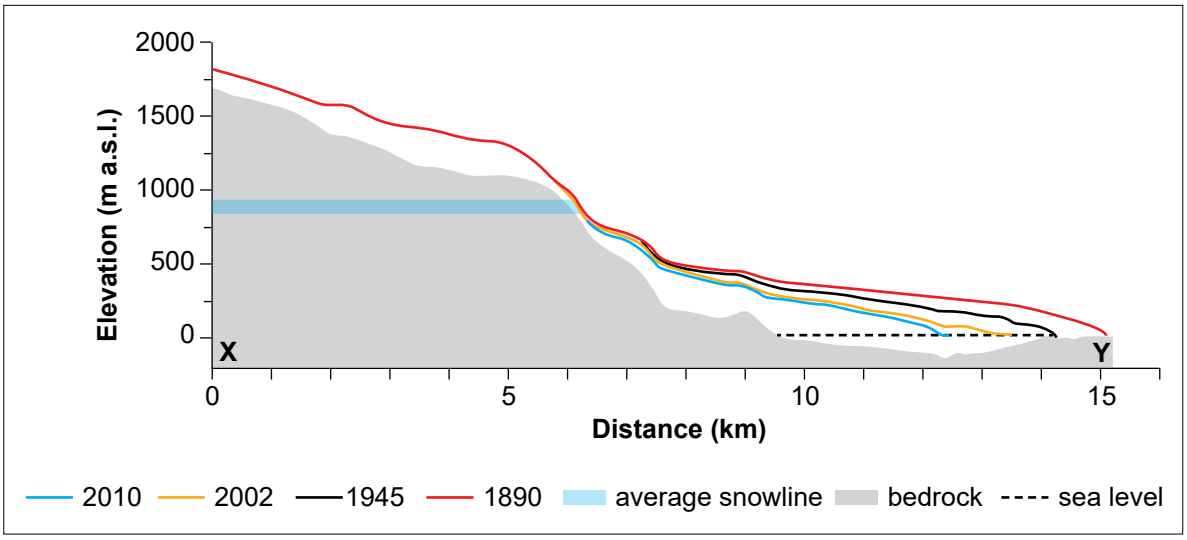

Figure 2d. Cross-section of the Fjallsjökull Glacier between points X and Y

Source: Adapted from BMP Chandler, DJA Evans, SJP Chandler et al., 'The glacial landsystem of Fjallsjökull, Iceland: Spatial and temporal evolution of process-form regimes at an active temperate glacier', *Geomorphology*, 361 (2020) 107192; licensed CC-BY 4.0

Figure 3. Human population

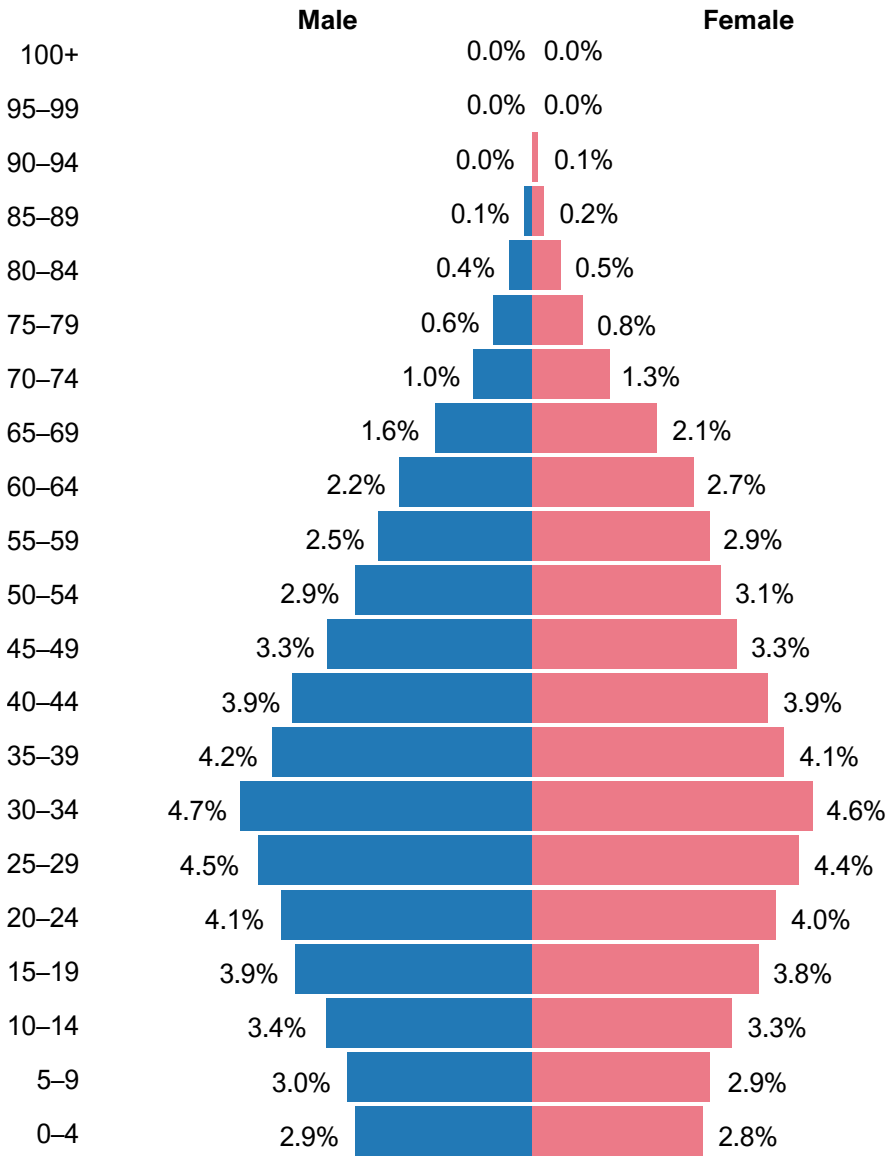

Figure 3. Population structure of Country A, 2025; licensed CC-BY 3.0 IGO

Source: Adapted from <populationpyramid.net>

End of Data Book

This page is blank.

© Victorian Curriculum and Assessment Authority 2025